1	If the sum of 4 consecutive integers is 46, what is the largest number?						
a	14	b	13	c	11	d	10

2	$\sqrt{88+(2-11)^2}$ =.....						
a	16	b	14	c	13	d	6

3	If $4^{3x}=4^{15}$, find the value of x						
a	2	b	3	c	4	d	5

4	If $4^{3x}=256$, find the value of $6x$						
a	4	b	6	c	10	d	12

BAKR ACADEMY

5	If $\left(\frac{1}{x^5} \div x^{\frac{-4}{5}}\right).x^2 = 27$, find the value of x						
a	3	b	4	c	5	d	6

6	If there are cards numbered from 1 to 20, find the probability of getting an odd number.						
a	10	b	$\frac{1}{2}$	c	$\frac{1}{4}$	d	1

7	The difference between a number and its square equals 72. What is the number?						
a	7	b	8	c	9	d	10

BAKR ACADEMY

8	If the time is now 1:00 pm., what will the time be after 50 hours?						
a	4:00 pm	b	3:00 am	c	3:00 pm	d	2:00 pm

9	Which of the following has the greatest value?						
a	$(6^2 \times 6)^5$	b	$(36)^5$	c	$(6^4)^4$	d	$(36^2 \times 6^3)^2$

10	Find the sum of the series 1 + 2 + 3 ..... + 18 + 19						
a	90	b	150	c	190	d	200

11	number was multiplied by 6, then 4 was added so The result was 82. What is the number?						
a	9	b	11	c	12	d	13

12	If the ratio between $x : x^2 = 4 : 40$, find the value of						
a	5	b	10	c	16	d	20

BAKR ACADEMY

13	A celebration school hall can hold up to 45 people. If the school principal, student counselor, and three teachers want to honor some students, and each student comes with one parent. Find the largest number of students to be invited?						
a	18	b	20	c	22	d	40

14	$4^3 + 4^4 = \ldots\ldots\ldots$						
a	$4^4 \times 3$	b	$4^3 \times 3$	c	$4^4 \times 5$	d	$4^3 \times 5$

15	$(51\sqrt{2})^2 - (49\sqrt{2})^2 = \ldots\ldots\ldots\ldots$						
a	200	b	400	c	600	d	800

16	Five numbers, the mean of the first 3 numbers is 10, and the mean of the last two numbers is 15, what is the mean of the five numbers?						
a	11	b	12	c	12.5	d	13

17	A man left his house at 6:29 am and returned home at 7:46 am. How many minutes did he spend outside the house?						
a	88	b	77	c	66	d	55

18	If the number of students is 28 students, how many students get “excellent”? 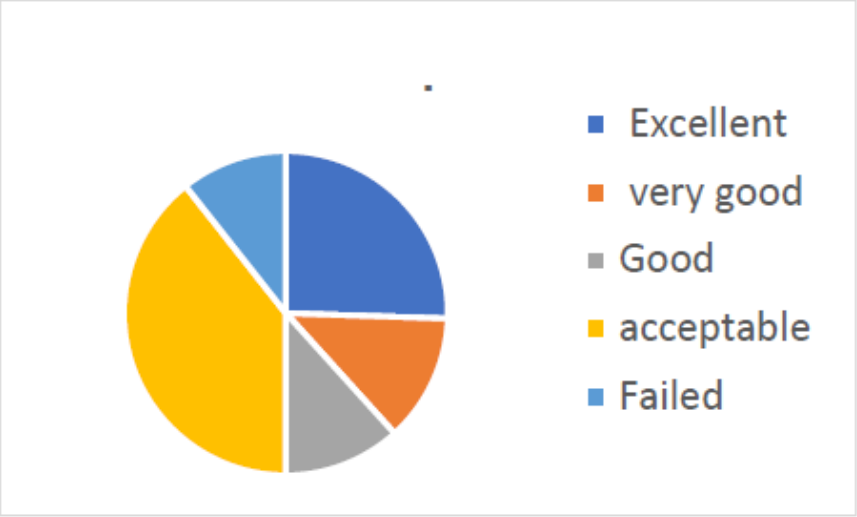						
a	7	b	8	c	11	d	12

19	A square drawn inside a circle. given that the side length of the square is 4, find the radius of the circle						
a	2	b	$2\sqrt{2}$	c	$\sqrt{2}$	d	$\sqrt{2}$

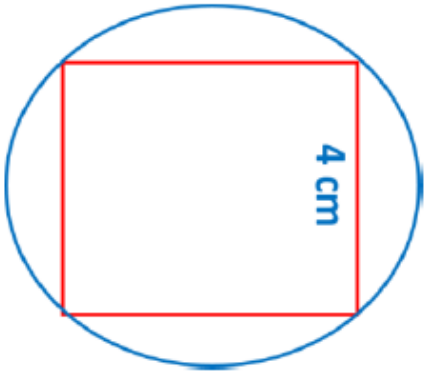

20	Find the area of the shape 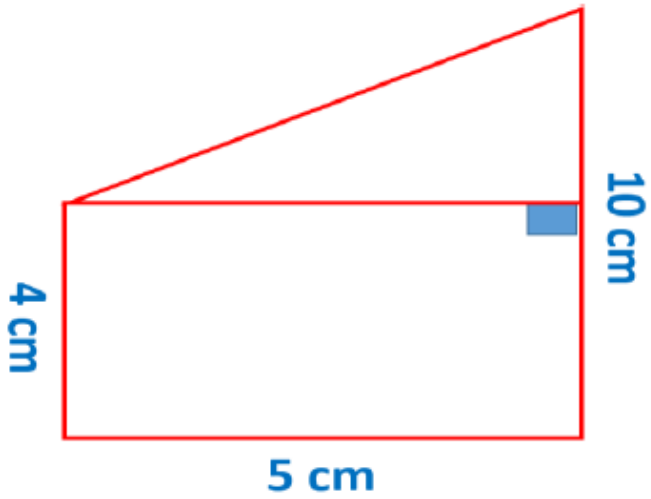						
a	35	b	45	c	55	d	65

21	If the ratio between the areas of two circles is 1:144, what is the ratio between the radii of the two circles?						
a	$\frac{1}{10}$	b	$\frac{1}{12}$	c	$\frac{1}{16}$	d	$\frac{1}{22}$

22	find the value of X 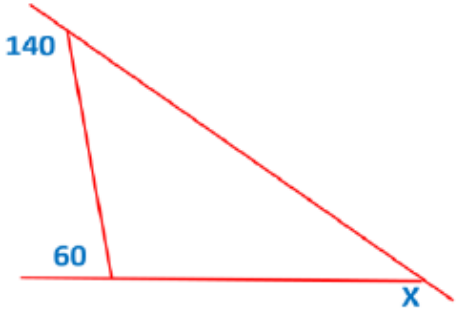						
a	50	b	120	c	150	d	160

BAKR ACADEMY

23	If all squares have the same area, find the value of x 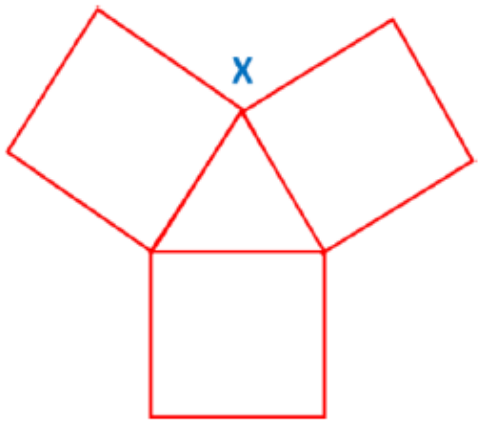						
a	901	b	100	c	110	d	120

24	If the adjacent figure is a square, find the value of the angle x. 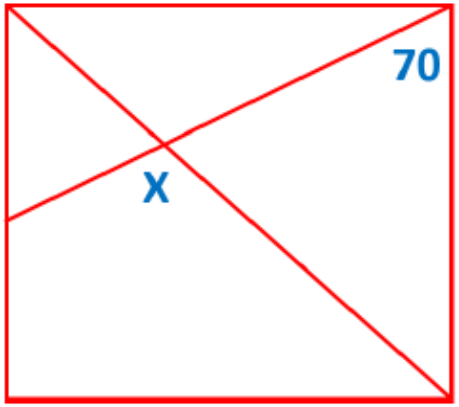						
a	113	b	63	c	115	d	154

BAKR ACADEMY

25	If the area of a circle 3.14 cm^2, find its Perimeter?						
a	3.14	b	4.32	c	6.28	d	10.24

BAKR ACADEMY

26	If 1 year = 365 days Compare between:		
First value		Second value	
1750 hours		$\frac{1}{5}$ of the year	
a	The first value is greater	b	The second value is greater
c	Both values are equal	d	Insufficient data

27	Compare between:		
First value		Second value	
$\frac{1000}{999}$		$\frac{100}{99}$	
a	The first value is greater	b	The second value is greater
c	Both values are equal	d	Insufficient data

28	Compare between:		
First value		Second value	
$\sqrt{25+49}$		12	
a	The first value is greater	b	The second value is greater
c	Both values are equal	d	Insufficient data

29	Compare between:		
First value		Second value	
One-fourth of eight		One-eighth of four	
a	The first value is greater	b	The second value is greater
c	Both values are equal	d	Insufficient data

30	Compare between:		
First value		Second value	
2^{-6}		2^{-9}	
a	The first value is greater	b	The second value is greater
c	Both values are equal	d	Insufficient data

74

74